I225E Statistical Signal Processing

2. Definition of Stochastic Process

Candy Olivia MAWALIM

candylim@jaist.ac.jp

School of Information Science

JAIST
JAPAN
ADVANCED INSTITUTE OF
SCIENCE AND TECHNOLOGY
HOKURIKU 1990

Stochastic processes

- Definitions
  Covariance, (auto- and cross-) correlations, correlation coefficients
- Stationarity (strict sense and wide sense)
  Normal processes

1. Introduction

- **Random variable: $\boldsymbol{X}$**

  Trial S: Throw dice/coin toss

  Outcome ω: Throw dice/coin toss

  Random Variable: $\boldsymbol{X}(\omega) = \{1, 2, 3, 4, 5, 6\}$;

  $\boldsymbol{X}(\omega) = \{0, 1\} \rightarrow \boldsymbol{X}(\omega)$ corresponds to ω

- **Stochastic Process: $\boldsymbol{X}(t, \omega)$**

  Outcome ω: Results of all trials

  Time t; $(-\infty, \infty)$

  $\rightarrow$ Function of time $\boldsymbol{X}(t, \omega)$ corresponds to ω.

Stochastic process $\boldsymbol{X}(t, \omega)$ represents an ω-parameter family of functions of time.

- For a fixed value t

  $\boldsymbol{X}(t)$ is a random variable that corresponds to ω

- Discrete-type vs. Continuous-type
  - Discrete time: $t \in N$ (Integer number)
  - Continuous time: $t \in R$ (Real number)
  - Discrete state: $\boldsymbol{X} \in$ Countable number of state
  - Continuous state: $\boldsymbol{X} \in$ Uncountable number of state

- Example of discrete-time discrete-state process: Series of numbers obtained by throwing a dice for six times.

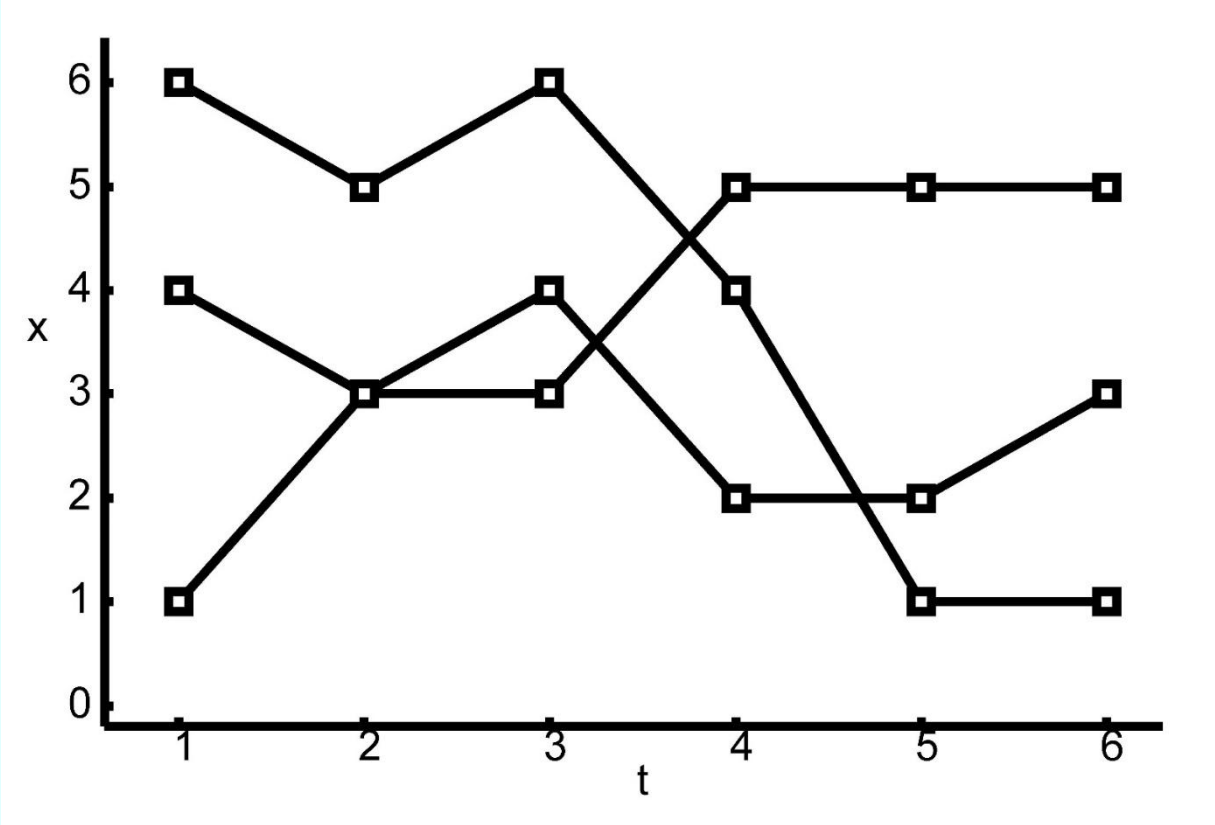

- Example of continuous-time continuous-state process: If t is fixed, $\boldsymbol{X}(t)$ represents stochastic variable.

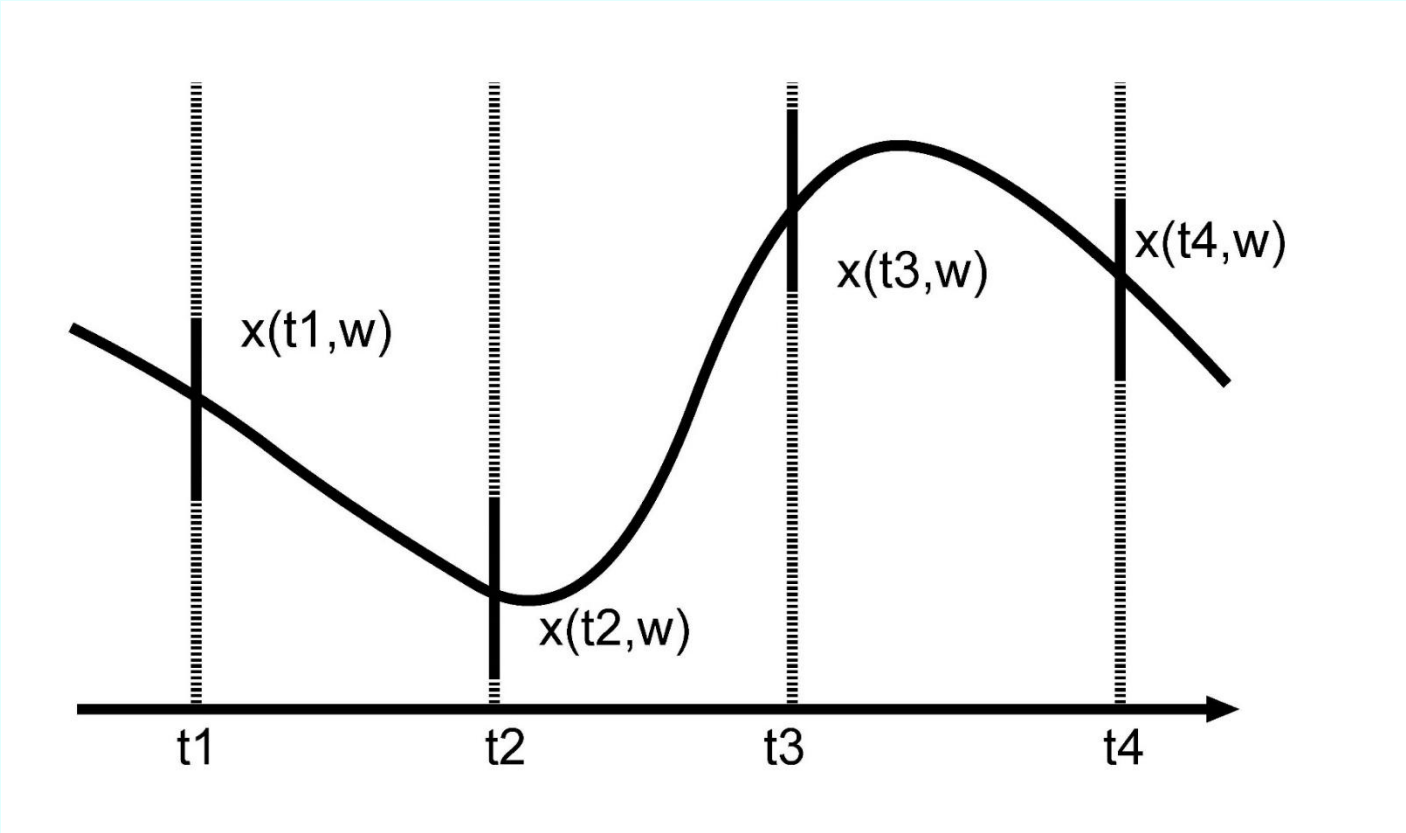

[Exercise]

Let $Z_1, Z_2, \ldots$ be independent identically distributed random variables with $P(Z_n = 1) = p$ and $P(Z_n = -1) = q = 1 - p$ for all n. Let

$$X_n = \sum_{i=1}^{n} Z_i \quad n = 1,2, \ldots$$

and X_0 = 0. The collection of random variables $\{X_n, n \geq 0\}$ is a stochastic process, and it is called the simple random walk $X(n)$ in one dimension.

(a) Describe the simple random walk $X(n)$.

(b) Construct a typical sample sequence (or realization) of $X(n)$.

[Exercise]

Consider a random process $X(t)$ defined by

$$X(t) = Y \ \cos \omega t \qquad t \geq 0$$

where ω is a constant and Y is a uniform random variable over $(0, 1)$.

(a) Describe the random process $X(t)$

(b) Sketch a few typical sample functions of $X(t)$

2. Definition

Statistical quantities of stochastic process

Stochastic process is a set of uncountable number of random variables. For each t, $\boldsymbol{X}(t)$ represents a random variable.

For a fixed t,

Probability distribution of $\boldsymbol{X}(t)$:

$$F_{\boldsymbol{X}}(x,t) = P\{\boldsymbol{X}(t) \leq x\}$$

Probability density of $\boldsymbol{X}(t)$:

$$f_{\boldsymbol{X}}(x,t) = \frac{\partial F_{\boldsymbol{X}}(x,t)}{\partial x}$$

Frequency

For n samples, n functions $\boldsymbol{X}(t, \omega_i)$ $(i = 1, 2, \cdots, n)$ are observed. Denote the number of samples that does not exceed a threshold value x by

$n_t(x)$ $(\boldsymbol{X}(t, \omega_i) \leq x)$, $F_{\boldsymbol{X}}(x, t) \approx \frac{n_t(x)}{n}$

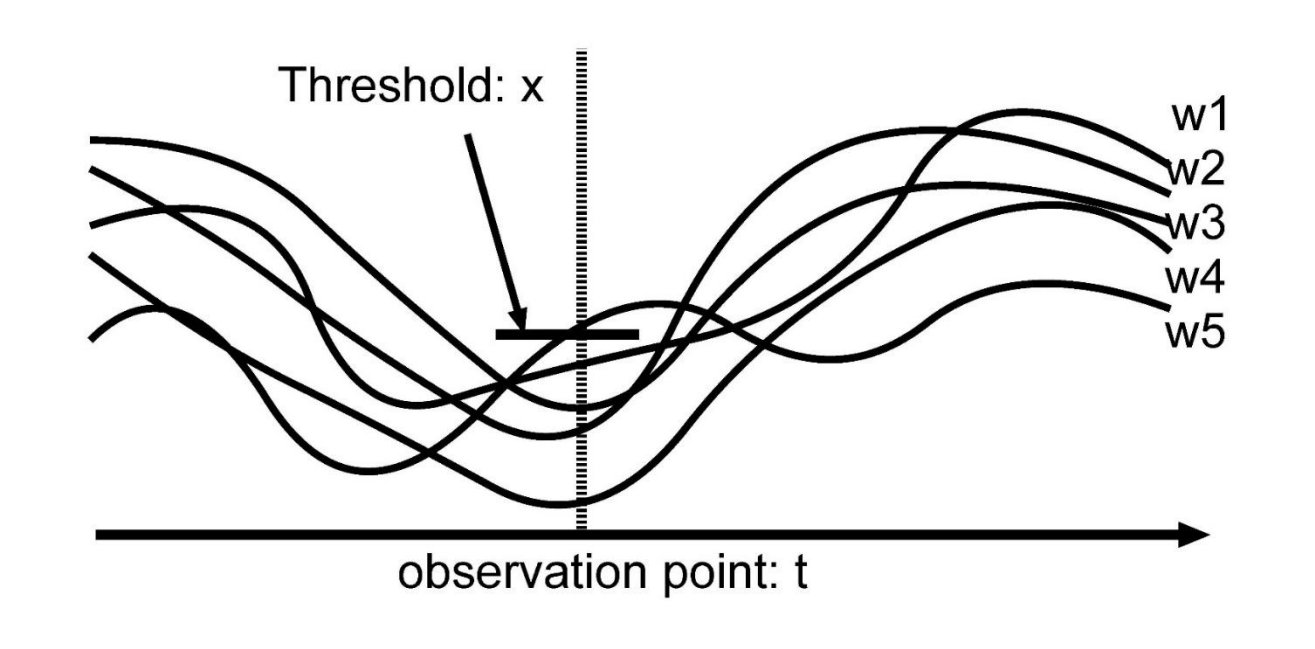

*n*th-order distribution and *n*th-order probability density

- **Joint distribution of random variable**

$X(t_i)$ $(i = 1, 2, \cdots, n)$

$$F_{\boldsymbol{X}}(x_1, x_2, \cdots, x_n; t_1, t_2, \cdots, t_n) = P\{\boldsymbol{X}(t_1) \le x_1, \boldsymbol{X}(t_2) \le x_2, \cdots, \boldsymbol{X}(t_n) \le x_n\}$$

$$f_{\boldsymbol{X}}(x_1, x_2, \cdots, x_n; t_1, t_2, \cdots, t_n) = \frac{\partial F_X(x_1, x_2, \cdots, x_n; t_1, t_2, \cdots, t_n)}{\partial x_1 \partial x_2 \cdots \partial x_n}$$

- **Marginal distribution:**

$$F_{\boldsymbol{X}}(x_1, x_2, \cdots, x_{n-1}; t_1, t_2, \cdots, t_{n-1}) = F_X(x_1, x_2, \cdots, x_{n-1}, \infty; t_1, t_2, \cdots, t_n)$$

$$f_{\boldsymbol{X}}(x_1, x_2, \cdots, x_{n-1}; t_1, t_2, \cdots, t_{n-1}) = \int_{-\infty}^{\infty} f_X(x_1, x_2, \cdots, x_n; t_1, t_2, \cdots, t_n) dx_n$$

[Exercise]

Consider two discrete random variables, X and Y.
Their joint probability mass function (PMF) is given by:

$f(x, y) = c \times (x + y)$, for $x = 1, 2, 3$ and $y = 1, 2$

(a) Find the value of the constant 'c' that makes this a valid joint PMF.

(b) Find the marginal PMFs of X and Y.

- **Mean value of random variable $\boldsymbol{X}$ at $\boldsymbol{t}$**

$$\eta_{\boldsymbol{X}}(t) = E\{\boldsymbol{X}(t)\} = \int_{-\infty}^{\infty} x f_{\boldsymbol{X}}(x,t)dx$$

where **sample mean** is $\bar{\boldsymbol{X}} = \frac{1}{n}\sum_{t=1}^{n} \boldsymbol{X}(t)$.

- **Autocorrelation** of $\boldsymbol{X}(t)$

$$R_{\boldsymbol{XX}}(t_1,t_2) = E\{\boldsymbol{X}(t_1)\boldsymbol{X}(t_2)\} = \int_{-\infty}^{\infty}\int_{-\infty}^{\infty} x_1 x_2 f_{\boldsymbol{X}}(x_1,x_2;t_1,t_2)dx_1dx_2$$

where **sample autocorrelation** is

$$\bar{R}_{\boldsymbol{XX}}\,(t_1,t_2) = \frac{1}{n}\sum_{t=1}^{n} \boldsymbol{X}(t+t_1)\boldsymbol{X}(t+t_2)$$

Covariance

$$C_{XX}(t_1, t_2) = R_{XX}(t_1, t_2) - \eta_X(t_1)\eta_X(t_2)$$

In the case of $t_1 = t_2 = t$, $C_{XX}(t_1, t_2)$ is equal to variance of

$$\boldsymbol{X}(t) \rightarrow C_{XX}(t, t) = E\{\boldsymbol{X}(t)\boldsymbol{X}(t)\} - \eta_X^2(t) = Var\big(\boldsymbol{X}(t)\big)$$

Complex process

$\boldsymbol{X}(t) = \boldsymbol{Y}(t) + j\boldsymbol{Z}(t)$: complex variable $\boldsymbol{X}(t)$ is composed of real part $\boldsymbol{Y}(t)$ and imaginary part $\boldsymbol{Z}(t)$.

$$R_{XX}(t_1, t_2) = E\{\boldsymbol{X}(t_1)\boldsymbol{X}^*(t_2)\}$$

$$R_{XX}(t_2, t_1) = R_{XX}^*(t_1, t_2)$$

$$R_{XX}(t, t) = E\{|\boldsymbol{X}(t)|^2\} \geq 0$$

$$C_{XX}(t_1, t_2) = R_{XX}(t_1, t_2) - \eta_X(t_1)\eta_X^*(t_2)$$

Correlation coefficient

$$r(t_1, t_2) = \frac{C_{XX}(t_1, t_2)}{\sqrt{C_{XX}(t_1, t_1) C_{XX}(t_2, t_2)}}$$

Example

Correlation coefficient $\bar{R}(|t_1 - t_2|) = \bar{R}(t_1, t_2)$ computed for vowel /a/.

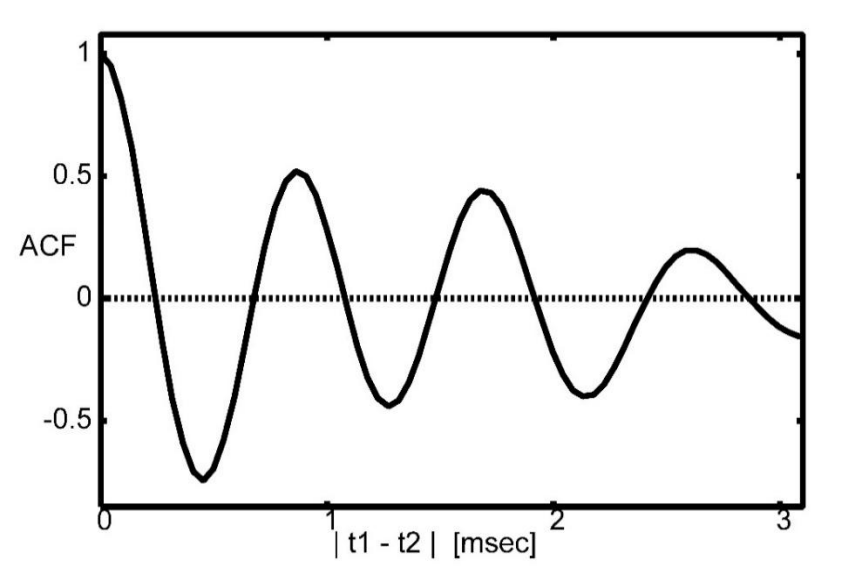

- **Cross-correlation** of 2 stochastic processes $\boldsymbol{X}(t), \boldsymbol{Y}(t)$

$$R_{\boldsymbol{XY}}(t_1, t_2) = E\{\boldsymbol{X}(t_1)\boldsymbol{Y}^*(t_2)\} = R^*_{\boldsymbol{YX}}(t_2, t_1)$$

- **Cross-covariance** of 2 stochastic processes $\boldsymbol{X}(t), \boldsymbol{Y}(t)$

$$C_{\boldsymbol{XY}}(t_1, t_2) = R_{\boldsymbol{XY}}(t_1, t_2) - \eta_{\boldsymbol{X}}(t_1)\eta^*_{\boldsymbol{Y}}(t_2)$$

- 2 stochastic processes $\boldsymbol{X}(t), \boldsymbol{Y}(t)$ are (mutually) **orthogonal**.

  For any t_1, t_2, $R_{\boldsymbol{XY}}(t_1, t_2) = 0$

- 2 stochastic processes $\boldsymbol{X}(t), \boldsymbol{Y}(t)$ are **uncorrelated**.

  For any t_1, t_2, $C_{\boldsymbol{XY}}(t_1, t_2) = 0$

- ***a*-dependent**

  $C_{\boldsymbol{XY}}(t_1, t_2) = 0$ for $|t_2 - t_1| > a$

- **White noise $\boldsymbol{W}(t)$**

  For $t_1 \neq t_2, C_{\boldsymbol{WW}}(t_1, t_2) = 0$.

  In other words, $C_{\boldsymbol{WW}}(t_1, t_2) = q(t_1)\delta(t_1 - t_2)$

- **Uncorrelated increments**

  For $t_1 < t_2 \leq t_3 < t_4, \boldsymbol{X}(t_2) - \boldsymbol{X}(t_1)$ and $X(t_4) - X(t_3)$ are not correlated.

Example: Integral of white noise, Brownian motion

[Exercise]

A complex stochastic process Z(t) is given by:

$$Z(t) = X(t) + iY(t)$$

Where:

$X(t)$ and $Y(t)$ are real-valued random processes.

i is the imaginary unit.

$E[X(t)] = 1,\ E[Y(t)] = 2$, for all t.

$Var[X(t)] = 4,\ Var[Y(t)] = 9$, for all t.

$Cov(X(t), Y(t)) = 0$, for all t.

The autocorrelation function of $X(t)$ is $R_{XX}(t_1, t_2) = 4 \cdot \exp(-\frac{|t1 - t2|}{2})$.

The autocorrelation function of $Y(t)$ is $R_{YY}(t_1, t_2) = 9 \cdot \cos\big(\pi * (t1 - t2)\big)$.

[Exercise]

a) Calculate the mean function of the complex process $Z(t)$.

b) Calculate the autocovariance function of the complex process $Z(t)$.

c) Calculate the autocorrelation function of the complex process $Z(t)$.

d) Calculate the correlation coefficient between $Z(t_1)$ and $Z(t_2)$.

Independent increments

For $t_1 < t_2 \leq t_3 < t_4$,
$\boldsymbol{X}(t_2) - \boldsymbol{X}(t_1)$ and $\boldsymbol{X}(t_4) - \boldsymbol{X}(t_3)$ are independent.

Example: Random walk, Wiener process, Poisson process

Independent process

For 2 process $\boldsymbol{X}(t), \boldsymbol{Y}(t)$, random variables $\boldsymbol{X}(t_i), \boldsymbol{Y}(t_j)$ are independent from each other.

Namely, for any t_1, t_2,

$$E\{\boldsymbol{X}(t_i)\boldsymbol{Y}(t_j)\} = E\{\boldsymbol{X}(t_i)\}E\{\boldsymbol{Y}(t_j)\}$$

Normal process

For any $n, t_1, t_2, \cdots, t_n$, joint distribution of random variables $\boldsymbol{X}(t_i)$ $(i = 1, 2, \cdots, n)$ becomes *n*th-order normal distribution.

- In case of $n = 1$,

  setting $\eta_{\boldsymbol{X}}(t) = E\{\boldsymbol{X}(t)\}$, $\sigma_{\boldsymbol{X}}^2(t) = C_{\boldsymbol{XX}}(t, t)$

$$f_{\boldsymbol{X}}(x; t) = \frac{1}{\sqrt{2\pi}\sigma_X(t)} \exp\left[-\frac{1}{2}\left(\frac{x - \eta_X(t)}{\sigma_X(t)}\right)^2\right]$$

- In case of $n = 2$, setting $\eta_{\boldsymbol{X}}(t_i) = E\{\boldsymbol{X}(t_i)\}$,

$\sigma_X^2(t_i) = C_{\boldsymbol{XX}}(t_i t_i)$, $\rho = \frac{C_{\boldsymbol{XX}}(t_1,t_2)}{\sigma_{\boldsymbol{X}}(t_1)\sigma_{\boldsymbol{X}}(t_2)}$,

$$f_{\boldsymbol{X}}(x_1, x_2\,; t_1, t_2) = \frac{1}{2\pi\sigma_{\boldsymbol{X}}(t_1)\sigma_{\boldsymbol{X}}(t_2)\sqrt{1-\rho^2}} \exp\left[-\frac{1}{2} Q(x_1, x_2\,; t_1, t_2)\right]$$

where

$$Q(x_1, x_2\,; t_1, t_2) = \frac{1}{1-\rho^2}\left\{\left(\frac{x_1 - \eta_{\boldsymbol{X}}(t_1)}{\sigma_{\boldsymbol{X}}(t_1)}\right)^2 - 2\rho\left(\frac{x_1 - \eta_{\boldsymbol{X}}(t_1)}{\sigma_{\boldsymbol{X}}(t_1)}\right)\left(\frac{x_2 - \eta_{\boldsymbol{X}}(t_2)}{\sigma_{\boldsymbol{X}}(t_2)}\right) + \left(\frac{x_2 - \eta_{\boldsymbol{X}}(t_2)}{\sigma_{\boldsymbol{X}}(t_2)}\right)^2\right\}$$

3. Stationary process

Strict sense stationary (SSS) process

Statistical property is invariant under time shift. Namely, for any constant c,

$$F_{\boldsymbol{X}}(x_1, x_2, \cdots, x_n; t_1, t_2, \cdots, t_n) = F_{\boldsymbol{X}}(x_1, x_2, \cdots, x_n; t_1 + c, t_2 + c, \cdots, t_n + c)$$

$$f_{\boldsymbol{X}}(x_1, x_2, \cdots, x_n; t_1, t_2, \cdots, t_n) = f_{\boldsymbol{X}}(x_1, x_2, \cdots, x_n; t_1 + c, t_2 + c, \cdots, t_n + c)$$

Hence

$f_{\boldsymbol{X}}(x; t) = f_X(x) \rightarrow$ 1st-order density is independent of t.

$f_{\boldsymbol{X}}(x_1, x_2; t_1, t_2) = f_{\boldsymbol{X}}(x_1, x_2; \tau) \rightarrow$ 2nd-order density is a function of time lag τ

- **Wide sense stationary (WSS) process**
- Statistical quantities up to 2nd-order are independent of time. Namely,

$E\{\boldsymbol{X}(t)\} = \eta x \rightarrow$ Mean is independent of t.

$E\{\boldsymbol{X}(t+\tau)\boldsymbol{X}^*(t)\} = R_{\boldsymbol{XX}}(\tau) \rightarrow$ Autocorrelation is a function of time lag τ.

- Hence

(a) $R(0) = E\{\boldsymbol{X}(t)\boldsymbol{X}^*(t)\} \rightarrow$ Mean square is independent of t.

(b) Variance $C_{\boldsymbol{XX}}(\tau) = R_{\boldsymbol{XX}}(\tau) - |\eta_{\boldsymbol{X}}|^2$

(c) Correlation coefficient $r(\tau) = C_{\boldsymbol{XX}}(\tau)/C_{\boldsymbol{XX}}(0)$

(d) Joint wide sense stationary

Each of two processes $\boldsymbol{X}(t)$ and $\boldsymbol{Y}(t)$ is wide sense stationary, and their cross-correlation depends only on $\tau = t_1 - t_2$.

$$R_{\boldsymbol{XY}}(\tau) = E\{(\boldsymbol{X}(t+\tau)\boldsymbol{Y}^*(t)\}$$

$$C_{\boldsymbol{XY}}(\tau) = R_{\boldsymbol{XY}}(\tau) - \eta_{\boldsymbol{X}}\eta_{\boldsymbol{Y}}^*$$

(e) If white noise $\boldsymbol{W}(t)$ is weakly stationary,

$$E\{\boldsymbol{W}(t)\} = \eta_{\boldsymbol{W}},\ C_{\boldsymbol{WW}} = q\delta(\tau)$$

(where $\eta_{\boldsymbol{W}}$ and q are constants)

In this lecture, we suppose $\eta_{\boldsymbol{W}} = 0$.

(f) If $\boldsymbol{X}(t)$ is an a-dependent process,

$C(\tau) = 0$ for $|\tau| > a$

a is called ***correlation time***.

(g) If $\boldsymbol{X}(t)$ is static sense stationary, then it is wide sense stationary. However, the inverse is not necessarily true.

(h) Since normal process can be described in terms of 2nd-order statistics, inverse of (g) also holds. Namely, if normal process is weakly stationary, it is also strongly stationary.

Sampling

If we set $\boldsymbol{X}[n] = \boldsymbol{X}(n\Delta t)$, statistical quantity of $\boldsymbol{X}[n]$ can be determined by statistical quantity of $\boldsymbol{X}(t)$. Namely,

$$\eta_{\boldsymbol{X}}[n] = \eta_{\boldsymbol{X}}(n\Delta t),$$
$$R_{\boldsymbol{XX}}[n_1, n_2] = R_{\boldsymbol{XX}}(n_1\Delta t, n_2\Delta t).$$

Furthermore, if $\boldsymbol{X}(t)$ is stationary, $\boldsymbol{X}[n]$ is also stationary. Opposite is not necessarily true.

Exercise

- A continuous-time stochastic process $\boldsymbol{X(t)}$ is defined as being Wide-Sense Stationary (WSS) with a mean of $\boldsymbol{\eta_X(t) = 5}$ and an autocovariance function given by:

$$\boldsymbol{C_{XX}(t_1, t_2) = 10e^{-2|t_1 - t_2|}}$$

- We sample this process with a sampling interval of $\boldsymbol{\Delta t = 0.5}$ seconds to create the discrete-time sequence $\boldsymbol{X[n] = X(n\Delta t)}$.
  a) Calculate the mean $\boldsymbol{\eta_X[n]}$ of the sampled sequence.
  b) Determine the autocovariance $\boldsymbol{C_{XX}[n, n+k]}$ of the sampled sequence.
  c) Verify if the discrete-time sequence $\boldsymbol{X[n]}$ is stationary.